# AP ICET 2026 Sample Papers, Previous Year Papers & Exam Pattern

Updated on February 25th, 2026 - 03:43 PM by Hitesh Sahu

The AP ICET is a competitive entrance exam where candidates must answer 200 questions within 150 minutes, making time management very important. Regular practice through mock tests, previous year papers, and sample papers helps improve speed, accuracy, and confidence. The AP ICET 2026 exam is scheduled to be held on May 09, 2026. With limited time left, students should start practising seriously and follow a smart study plan to perform well in the examination.

## AP ICET 2026: Highlights of the Exam

Before proceeding to download the AP ICET model papers 2026, students must know the key features of AP ICET 2026 .

| Features | Details |
|---|---|
| Name of the Exam | Andhra Pradesh Integrated Common Entrance Test (AP ICET) |
| Name of conducting body | Sri Krishnadevaraya University, Ananthapuramu |
| Category of exam | Postgraduate |
| Exam type | State-level |
| Test purpose | Test for admission into colleges/universities of Andhra Pradesh |

| | |
|---|---|
| Duration of exam | 150 minutes |
| The pattern of AP ICET exam | Multiple-choice questions |
| Mode of AP ICET exam | Computer-Based Mode |

## AP ICET 2026 Sample Papers

The AP ICET 2026 sample papers will help candidates improve their speed and accuracy while preparing them for the actual exam. Additionally, AP ICET previous question papers with answers ensure that the students understand the logic behind each correct answer. Find section-wise sample questions below:

### Section-A: Analytics Ability

1. **DIRECTIONS:** The question below is followed by two statements marked I and II. Mark as your answer.

The area of a square is equal to that of a circle. What is the circumference of the circle?

I. The diagonal of the square is X inches.

II. The side of the square is Y inches.

1. If the data in statement I alone are sufficient to answer the question, while the data in statement II alone are not sufficient to answer the question.
2. If the data in statement II alone are sufficient to answer the question, while the data in statement I alone are not sufficient to answer the question.
3. If the data either in statement I alone or in statement II alone are sufficient to answer the question.
4. If the data even in both statements I and II together are not sufficient to answer the question.

**Correct Answer:- C**

**Explanation:-**

Since we know that area of square = area of circle i.e. statement I gives the diagonal of the square, so we can determine the side of the square in terms of X and hence the circumference too in terms of X, so statement I is alone sufficient. Statement II gives us the side of the square. So we can find the circumference of the circle in terms of Y. Hence 3rd option.

**2. DIRECTIONS:** The question below is followed by two statements marked I and II. Mark as your answer.

What is the height of a right-angled triangle?

I. The area of the right-angled triangle is equal to the area of a rectangle whose breadth is 15 m.
II. The length of the rectangle is 12 m.

1. If the data in statement I alone are sufficient to answer the question, while the data in statement II alone are not sufficient to answer the question.
2. If the data in statement II alone are sufficient to answer the question, while the data in statement I alone are not sufficient to answer the question.

3. If the data either in statement I alone or in statement II alone are sufficient to answer the question.
4. If the data even in both statements I and II together are not sufficient to answer the question.

**Correct Answer:- D**

**Explanation:-**

Statement I gives us that 1/2 × Base × height = I × 15, so is not sufficient. Statement II gives L= 12 m, hence alone is not sufficient. Even on combining the two statements we cannot find the height as we do not know the base also. Hence option (4).

**4. DIRECTIONS:** The question below is followed by two statements marked I and II. Mark your answer.

What is the average daily wage of a worker who works for five days; he made Rs. 80 on the first, day.

I. The worker made a total of Rs. 400 for the first four days of work.
II. The worker made 20% more each day than he did on the previous day.

1. If the data in statement I alone are sufficient to answer the question, while the data in statement II alone are not sufficient to answer the question.
2. If the data in statement II alone are sufficient to answer the question, while the data in statement I alone are not sufficient to answer the question.
3. If the data either in statement I alone or in statement II alone are sufficient to answer the question.
4. If the data even in both statements I and II together are not sufficient to answer the question.

**Correct Answer:- B**

**Explanation:-**

Statement I just tells us the total of Rs.400 for the first four days of the work, so the average daily wages of five days cannot be determined. Statement II states that the worker made 20 % more each day and we know that he earns Rs. 80 the first day, so we can calculate the wages for five days and hence the average. Hence statement II alone is sufficient to give the answer.

**5. DIRECTIONS:** The question below is followed by two statements marked I and II. Mark as your answer.

What is the cost of laying the carpet in a rectangular hall?

I. The cost of the carpet is Rs. 450 per square metre.
II. The perimeter of the hall is 50 meters.

1. If the data in statement I alone are sufficient to answer the question, while the data in statement II alone are not sufficient to answer the question.
2. If the data in statement II alone are sufficient to answer the question, while the data in statement I alone are not sufficient to answer the question.
3. If the data either in statement I alone or in statement II alone are sufficient to answer the question.
4. If the data even in both statements I and II together are not sufficient to answer the question.

**Correct Answer:- D**

**Explanation:-**

Statement I gives the cost of the carpet only and no dimensions are known, so is not sufficient alone. Statement II gives us the perimeter of the hall but since the hall is a rectangle we still do not know the length and breadth of the room. So not sufficient. Even on combining, we do not know the dimensions of the room. Hence option (4).

**6. Directions:** Which of the following numbers will replace the question mark (?) in the given series?

2, 4, 10, 28, ?, 244

1. 94
2. 90
3. 88
4. 82

**Given:**

2, 4, 10, 28, ?, 244

In the above-given series, multiply the previous term by 3 and then subtract 2 from the resultant to get the next term in the series.

(2 × 3) – 2 = 6 – 2 = 4

(4 × 3) – 2 = 12 – 2 = 10

(10 × 3) – 2 = 30 – 2 = 28

(28 × 3) – 2 = 84 – 2 = 82

(82 × 3) – 2 = 246 – 2 = 244

So, 82 is the missing number of the series. Hence, the fourth option is correct.

**7. Directions:** Select the option which is related to the third word in the same way as the second word is related to the first word.

(The words should be treated as meaningful English/Hindi words and related to each other on the basis of number of letters/number of consonants/number of vowels in the word)

Panda : Bamboo : Koala :?

1. Bark
2. Grass
3. Eucalyptus
4. Fish

**Given:**

Panda : Bamboo : Koala :?

Panda eats Bamboo.

Similarly, Koala eats Eucalyptus.

Therefore, Eucalyptus is the correct answer and the series is as follows –

Panda : Bamboo : Koala : Eucalyptus

Hence, the third option is correct.

**8. Directions:** Read the given statement(s) and conclusions carefully. Assuming that the information given in the statements is true, even if it appears to be at variance with commonly known facts, decide which of the given conclusions logically follow(s) from the statement(s).

**Statements:**

Some stones are cubes.

No cube is a glass.

All bats are cubes.

Conclusions:

I. Some stones being bats is a possibility.

II. No bat is a glass.

III. All cubes are bats.

IV. No stone is a glass.

1. Only Conclusions I, II and IV follow
2. Only Conclusions II and III follow
3. Only Conclusions I and II follow
4. Only Conclusion I follows

**Solution:** The possible Venn diagram according to the given statements is as follows –

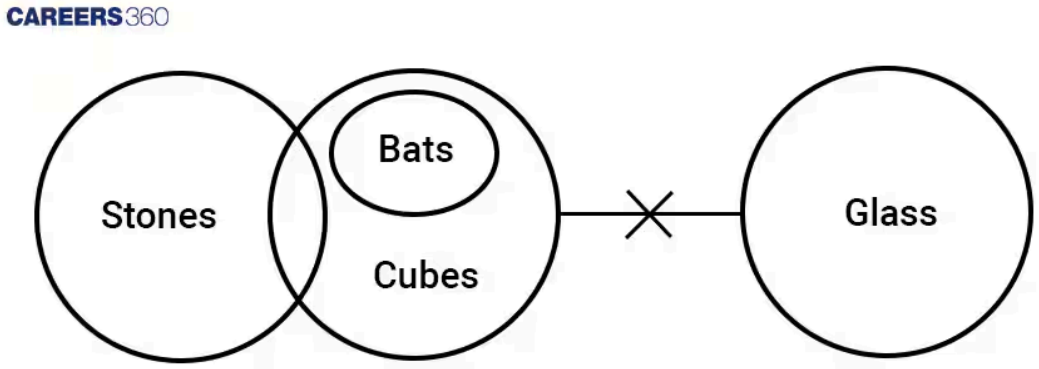


Let's analyze the conclusions –

Conclusion I: Some stones being bats is a possibility – As some stones are cubes and all bats are cubes. So some stones being bats is possible. Therefore, this conclusion follows.

Conclusion II: No bat is a glass – All the bats are cubes and no cube is a glass. So, no bat is a glass. Therefore, this conclusion follows.

Conclusion III: All cubes are bats – From the above diagram, the circle that represents bats lies inside the circle that represents cubes. From this, it can be inferred that some cubes can be bats but all cubes are bats is not definite. Therefore, this conclusion does not follow.

Conclusion IV: No stone is a glass – Based on the given statements and from the above diagram, there is no direct relation between stone and glass. So, no conclusion can be drawn.

So, only conclusion I and II follow. Hence, the third option is correct.

9. The import and export of a country (in lakhs rupees) during a certain period is given in the following bar graph. Read the bar graph carefully and answer the following question.

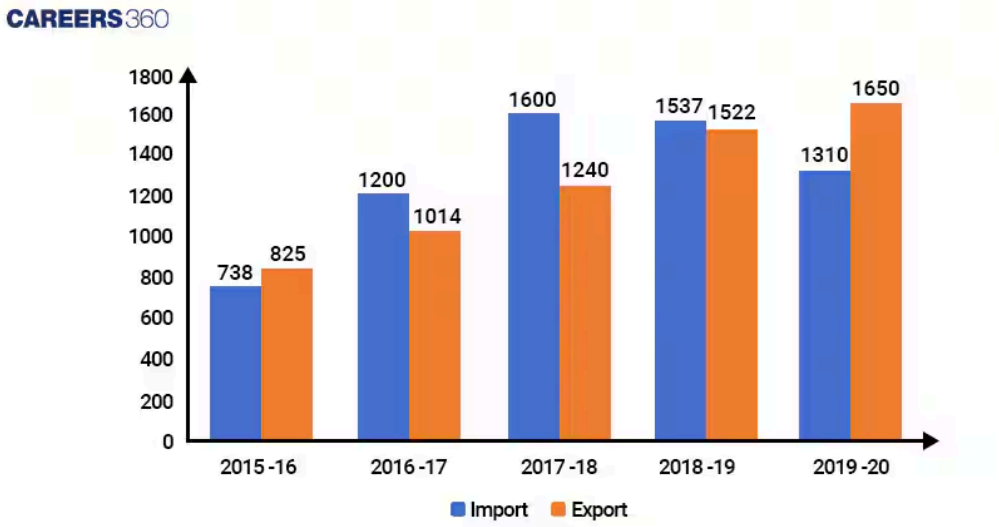


During which year the difference between import and export is minimal?

1. 2018 - 19
2. 2019 - 20
3. 2016 - 17
4. 2017 - 18

**Solution:** Import in 2015-16 = 738

Export in 2015-2016 = 825

Difference between import and export in 2015-16 = 87

Import in 2016-17 = 1200

Export in 2015-2016 = 1014

Difference between import and export in 2016-17 = 86

Import in 2017-18 = 1600

Export in 2017-2018 = 1240

Difference between import and export in 2017-18 = 360

Import in 2018-19 = 1537

Export in 2018-2019 = 1522

Difference between import and export in 2018-19 = 15

Import in 2019-20 = 1310

Export in 2019-2020 = 1650

Difference between import and export in 2015-16 = 340

So, the Year 2018-19 has the minimum required difference.

Hence, the correct answer is 2018-19

10. What is the average of exports during the given period of time?

1. Rs.1,250.2 lakhs
2. Rs.1,240.0 lakhs
3. Rs.1,248.2 lakhs
4. Rs.1,115.4 lakhs

**Solution:** Total export of the country = 825 + 1014 + 1240 + 1522 + 1650 = 6251

Total number of years = 5

Average export = Total export / Number of years

Average export = 6251 / 5

Average export = 1250.2

Hence, the answer is Rs. 1250.2 lakhs.

## Section-B: Communication Ability

1. Select the most appropriate collocating word to fill in the blank.

Ram was praised for his_____ leadership.

1. Imaginary
2. Visionary
3. Magical
4. Broad

**Correct Option:** The correct answer is the second option.

It means having the ability to think about or plan the future with imagination or wisdom. This word fits well in the context of praising leadership that is forward-thinking, innovative, and strategic.

The meanings of other options are as follows:

- Imaginary: Existing only in the imagination; not real.
- Magical: Related to magic or producing extraordinary results.
- Broad: Wide in scope or extent; not specific.

Therefore, the complete sentence is "Ram was praised for his visionary leadership."

2. Select the most appropriate meaning of the given idiom.

All eyes

1. Watching with anger
2. Watching eagerly
3. Watching with no interest
4. Not watching at all

**Correct Option:** The correct answer is the second option.

The idiom "all eyes" typically means that everyone is watching or paying close attention to something with great interest or eagerness. It implies a collective focus or scrutiny on a particular event, person, or situation.

3. Select the most appropriate ANTONYM of the word 'SINKS' from the given sentence.

Groups work together to create Christmas parade themes, which are then carried out in floats, musical groups, and strolling figures.

1. Floats
2. Create
3. Parade
4. Strolling

The first option is correct.

The word "floats" is the most appropriate antonym for "sinks".

**Explanation:** In the context of the sentence, "floats" is the opposite of "sinks". While "sinks" implies descending or going down, "floats" suggests remaining on the surface or staying afloat. The antonym relationship between "sinks" and "floats" is based on the contrasting actions of sinking and floating.

- Create: To bring something into existence or to produce.
- Parade: A parade is a public procession, often including a series of floats or other elaborate displays.
- Strolling: Refers to walking leisurely, often for pleasure.

4. How does the Transactional Model of Communication relate to negotiation processes?

A) It emphasizes one-way communication

B) It emphasizes the interactive and dynamic nature of communication during negotiations

C) It discourages communication during negotiations

D) It suggests a static communication process

**Correct Option:** B) It emphasizes the interactive and dynamic nature of communication during negotiations

**Explanation:** The Transactional Model of Communication aligns with negotiation processes by highlighting the interactive and dynamic nature of communication in negotiation settings.

5. What is the purpose of using clear and concise subject lines in email communication?

A) To confuse recipients

B) To prioritize and understand the email's purpose quickly

C) To increase the length of the email

D) To disregard the content of the email

**Correct Option:** B) To prioritize and understand the email's purpose quickly

**Explanation:** Clear and concise subject lines help recipients prioritize and quickly understand the purpose of the email, facilitating effective communication.

6. Read the following Passage and answer the Questions given below:

Passage:

Late one evening, a curious teenager reached out to me, expressing his bewilderment at the vast world of programming and beseeching guidance on what languages to learn and books to read. Reflecting upon his plea, I found my certainty waver. Rather than basking in the implied acknowledgement of my coding expertise, I found myself humbled. As I pondered the abyss of programming languages and frameworks I had yet to explore compared to my limited coding knowledge, my confidence dwindled.

Why, dear seeker of knowledge, I mused, I can barely scratch the surface. I'm merely a custodian of an expansive unknown. The algorithms I haven't mastered, the technologies I'm yet to understand, and the projects I haven't tackled — young coder, if you were privy to all this, you would marvel. But strangely, it doesn't dampen my spirits. In fact, I feel a sense of optimism in the face of these colossal, uncharted territories. Someday, perhaps, I will unravel the intricacies of these coding enigmas. In my heart, however, I harbour doubts about accomplishing such lofty goals.

The curious teenager was:

A) Perplexed

B) Excited

C) Bored

D) Eager

**Correct Option:** D) Eager

**Explanation:** The passage mentions that the curious teenager reached out, expressing bewilderment and seeking guidance. The use of words like "beseeching" and the author's reflection on the abyss of knowledge suggests that the teenager was eager to learn.

7. Read the following Passage and answer the Questions given below:

Passage:

Late one evening, a curious teenager reached out to me, expressing his bewilderment at the vast world of programming and beseeching guidance on what languages to learn and books to read. Reflecting upon his plea, I found my certainty waver. Rather than basking in the implied acknowledgement of my coding expertise, I found myself humbled. As I pondered the abyss of programming languages and frameworks I had yet to explore compared to my limited coding knowledge, my confidence dwindled.

Why, dear seeker of knowledge, I mused, I can barely scratch the surface. I'm merely a custodian of an expansive unknown. The algorithms I haven't mastered, the technologies I'm yet to understand, and the projects I haven't tackled — young coder, if you were privy to all this, you would marvel. But strangely, it doesn't dampen my spirits. In fact, I feel a sense of optimism in the face of these colossal, uncharted territories. Someday, perhaps, I will unravel the intricacies of these coding enigmas. In my heart, however, I harbour doubts about accomplishing such lofty goals.

The teenager's trust in the author's coding expertise made the author feel:

A) Overwhelmed

B) Humbled

C) Uninterested

D) Doubtful

**Correct Option:** B) Humbled

**Explanation:** The author reflects on feeling humbled rather than flattered by the implied acknowledgement of coding expertise. This indicates that the teenager's trust in the author's coding knowledge made the author feel humble.

8. Read the following Passage and answer the Questions given below:

Passage:

Late one evening, a curious teenager reached out to me, expressing his bewilderment at the vast world of programming and beseeching guidance on what languages to learn and books to read. Reflecting upon his plea, I found my certainty waver. Rather than basking in the implied acknowledgement of my coding expertise, I found myself humbled. As I pondered the abyss of programming languages and frameworks I had yet to explore compared to my limited coding knowledge, my confidence dwindled.

Why, dear seeker of knowledge, I mused, I can barely scratch the surface. I'm merely a custodian of an expansive unknown. The algorithms I haven't mastered, the technologies I'm yet to understand, and the projects I haven't tackled — young coder, if you were privy to all this, you would marvel. But strangely, it doesn't dampen my spirits. In fact, I feel a sense of optimism in the face of these colossal, uncharted territories. Someday, perhaps, I will unravel the intricacies of these coding enigmas. In my heart, however, I harbour doubts about accomplishing such lofty goals.

The author's coding knowledge was as vast as a(n):

A) Ocean

B) Meadow

C) Desert

D) Abyss

**Correct Option:** D) Abyss

**Explanation:** The passage compares the author's coding knowledge to an abyss, emphasizing the vastness and unexplored nature of the coding languages and frameworks that the author has yet to explore.

9. Read the following Passage and answer the Questions given below:

Passage:

Late one evening, a curious teenager reached out to me, expressing his bewilderment at the vast world of programming and beseeching guidance on what languages to learn and books to read. Reflecting upon his plea, I found my certainty waver. Rather than basking in the implied acknowledgement of my coding expertise, I found myself humbled. As I pondered the abyss of programming languages and frameworks I had yet to explore compared to my limited coding knowledge, my confidence dwindled.

Why, dear seeker of knowledge, I mused, I can barely scratch the surface. I'm merely a custodian of an expansive unknown. The algorithms I haven't mastered, the technologies I'm yet to understand, and the projects I haven't tackled — young coder, if you were privy to all this, you would marvel. But strangely, it doesn't dampen my spirits. In fact, I feel a sense of optimism in the face of these colossal, uncharted territories. Someday, perhaps, I will unravel the intricacies of these coding enigmas. In my heart, however, I harbour doubts about accomplishing such lofty goals.

The author takes their coding skills for granted.

A) Enthusiasm

B) Proficiency

C) Complexity

D) Expertise

**Correct Option:** D) Expertise

**Explanation**: The passage suggests that the author does not take their coding skills for granted but recognises their expertise. The term "custodian of an expansive unknown" implies a sense of responsibility and proficiency.

10. Read the following Passage and answer the Questions given below:

Passage:

Late one evening, a curious teenager reached out to me, expressing his bewilderment at the vast world of programming and beseeching guidance on what languages to learn and books to read. Reflecting upon his plea, I found my certainty waver. Rather than basking in the implied acknowledgement of my coding expertise, I found myself humbled. As I pondered the abyss of programming languages and frameworks I had yet to explore compared to my limited coding knowledge, my confidence dwindled.

Why, dear seeker of knowledge, I mused, I can barely scratch the surface. I'm merely a custodian of an expansive unknown. The algorithms I haven't mastered, the technologies I'm yet to understand, and the projects I haven't tackled — young coder, if you were privy to all this, you would marvel. But strangely, it doesn't dampen my spirits. In fact, I feel a sense of optimism in the face of these colossal, uncharted territories. Someday, perhaps, I will unravel the intricacies of these coding enigmas. In my heart, however, I harbour doubts about accomplishing such lofty goals.

'Uncharted territories' in the passage implies areas of programming with which the author is:

A) Seasoned

B) Unexplored

C) Mastered

D) Navigated

**Correct Option**: B) Unexplored

**Explanation:** The phrase "colossal, uncharted territories" indicates that the author considers the areas of programming mentioned as unexplored or not yet ventured into, supporting the choice of "Unexplored."

## Section-C: Mathematical Ability

1. The value of tan2 θ + cot2 θ − sec2 θ cosec2 θ is:

2. 2

3. -2

4. 0

5. ½

**Solution:** tan2(θ) + cot2(θ) - sec2(θ) cosec2(θ)

= sin22(θ)/cos2(θ) + cos2(θ)/sin2(θ) - 1/(sin2(θ)cos2(θ))

= (sin4(θ) + cos4(θ) - 1)/(sin2(θ)cos2(θ))

= ((sin2(θ) + cos2(θ))2 - 2sin2(θ)cos2(θ) - 1)/(sin2(θ)cos2(θ))

= (1 - 2sin2(θ)cos2(θ) - 1)/(sin2(θ)cos2(θ))

= -2

Hence, the correct answer is -2

2. Two numbers are in the ratio of 6 : 5. If their HCF is 3, then what is the LCM of the two numbers?

1. 64

2. 110

3. 90

4. 80

**Given**: The two numbers are in the ratio 6 : 5.

Their HCF is 3.

Let the numbers be 6x and 5x

HCF(6x, 5x) = x

So, x = 3

The numbers are 18 and 15.

LCM(18, 15) = 90

Hence, the correct answer is 90.

3. If a 7-digit number 54p3987 is divisible by 11, then p is equal to:

1. 5
2. 9
3. 4
4. 1

**Given:** a 7-digit number 54p3987 is divisible by 11

⇒ 5 + p + 9 + 7 – 4 – 3 – 8 = 0 or multiple of 11

⇒ 21 + p – 15 = 0 or multiple of 11

⇒ 6 + p = 0 or multiple of 11

For p = 5, we get 11

⇒ p = 5

Hence, the correct answer is 5.

4. The price of a scooter increases successively by10%, 5% and 15%. What is the total percentage increase in price of scooter?

1. 32 33/40 %
2. 34 21/40 %
3. 30 11/40 %
4. 36 31/40 %

**Solution:** Let the initial price of the scooter be 100.

After successive increment of 10%, 5%, and 15% = 100 × (110/100) × (105/100) × (115/100)

= 100 × (11/10) × (21/20) × (23/20)

= (11 × 21 × 23)/40

= 5313/40

Difference = Price after increment – initial price

= 5313/40 - 100

= (5313 - 4000)/40

= 1313/40

Percentage increased = (Difference / Initial price) × 100

= (1313/40) / 100 × 100

= 1313/40

= 32 33/40 %

Hence, the correct answer is 32 33/40 %.

5. Two stations R and S are 400 km apart from each other. A train leaves from R to S and simultaneously another train leaves from S to R. Both trains meet after 10 hours. If the speed of the first train is 4 km/hr more than the second train, then what is the speed of the slower train?

1. 18 km/hr
2. 26 km/hr
3. 16 km/hr
4. 22 km/hr

**Solution:** Let the speed of the slower train be "x" km/hr. Since the speed of the first train is 4 km/hr more than the second train, its speed is "x + 4" km/hr.

Distance = Speed × Time

For the first train (the faster one), the distance is (x + 4) km/hr × 10 hours = 10(x + 4) km.

For the second train (slower one), the distance is x km/hr × 10 hours = 10x km

⇒ 10(x + 4) + 10x = 400

⇒ 10x + 40 + 10x = 400

⇒ 20x = 360

⇒ x = 18

Hence, the correct answer is 18 km/hr.

6. What is the ratio of the mean proportional between 1.6 and 3.6 and the third proportional of 5 and 8?

1. 2 : 15
2. 5 : 16
3. 3 : 16
4. 4 : 15

**Solution:** To find: Mean proportion of 1.6 and 3.6.

Mean proportion = √(ab)

= √(1.6 × 3.6)

= 2.4

Now, the third proportion of 5 and 8.

Third proportion = $b^2$ / a

= $8^2$ / 5

= 64/5

Ratio of mean proportion to third proportion = 2.4 : (64/5)

= 12 : 64

= 3 : 16.

Hence, the correct answer is 3 : 16.

7. A container contains 25 litre of milk. From this container, 5 litre of milk is taken out and replaced by water. This process is further repeated two times. How much milk is there in the container now?

1. 11.5 litre
2. 14.8 litre
3. 13.5 litre
4. 12.8 litre

**Solution:** Left Quantity = Initial Quantity(1 – [Fraction removed])N (Where N = Number of times the process is carried out)

Fraction of milk removed = 5/25 = 1/5

Now, the quantity of milk left in the container

= 25(1 - 1/5)3

= 25 × (4/5)3

= 25 × 64/125

= 12.8 litre

∴ There are 12.8 liters of milk left in the container.

Hence, the correct answer is 12.8 liter.

8. A solid metallic sphere of radius 12 cm is melted and recast into a cone having a diameter of the base of 12 cm. What is the height of the cone?

1. 258 cm

2. 192 cm

3. 166 cm

4. 224 cm

**Solution:** According to the question,

The volume of the sphere = Volume of the cone

So, (4/3)π123 = (1/3)π62h

⇒ 4 × 123 = π62h

⇒ 4 × 48 = h

⇒ h = 192

Hence, the correct answer is 192 cm

9. If A ∩ B = {3, 4, 5, 6} and A ∩ C = {5} then the value of set A ∩ (B - C) is ?

1. {3, 4, 5, 6}

2. {3}

3. {3,4,6}

4. {3,5}

Solution: Using Venn diagram one can see that

A ∩ (B - C) = (A ∩ B) - (A ∩ C)

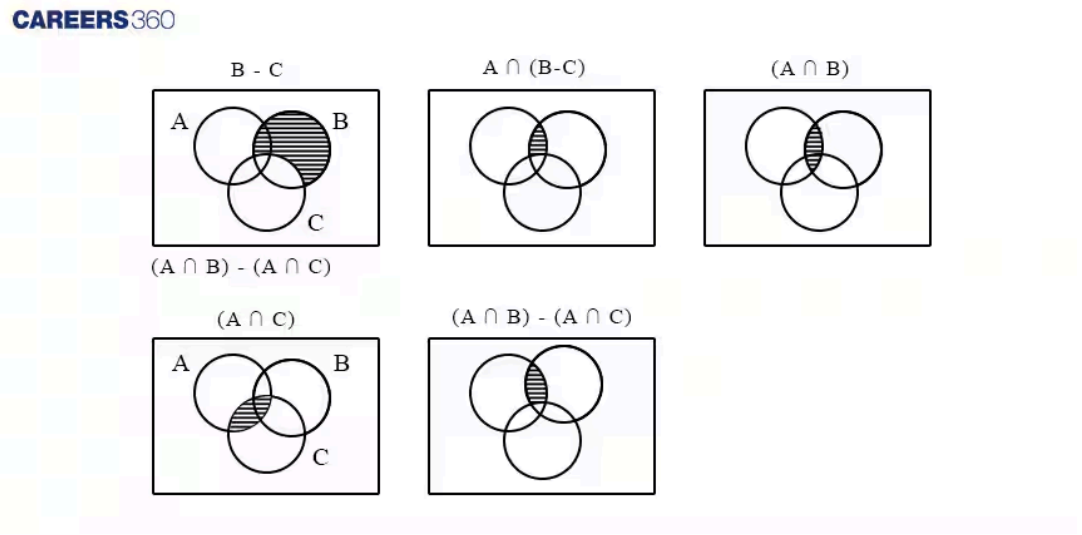


So, A ∩ (B - C) = (A ∩ B) - (A ∩ C) = {3,4,5,6} - {5} = {3,4,6}

10. Calculate the mean from the following table.

Scores Frequencies

| | |
|---|---|
| 0-10 | 2 |
| 10-20 | 4 |
| 20-30 | 12 |
| 30-40 | 21 |
| 40-50 | 6 |
| 50-60 | 3 |
| 60-70 | 2 |

1. 34.2
2. 33.4
3. 32.6
4. 35.8

**Solution:**

| Scores | Frequencies | Mid Point | Mid Point × Frequencies |
|---|---|---|---|
| 0-10 | 2 | 5 | 10 |
| 10-20 | 4 | 15 | 60 |
| 20-30 | 12 | 25 | 300 |
| 30-40 | 21 | 35 | 735 |
| 40-50 | 6 | 45 | 270 |
| 50-60 | 3 | 55 | 165 |
| 60-70 | 2 | 65 | 130 |

Mean = (Σ (Mid Point × Frequencies)) / Σ Mid Point

= (10 + 60 + 300 + 735 + 270 + 165 + 130) / (2 + 4 + 12 + 21 + 6 + 3 + 65)

= 1670 / 50

= 33.4

Hence, the correct answer is 33.4.

## Best Ways to Use AP ICET Sample Papers

Preparing for AP ICET requires more than just covering the syllabus—it demands strategic practice and performance analysis. Sample papers play a crucial role in understanding the exam pattern, improving speed, and identifying weak areas. By solving AP ICET sample papers regularly, candidates can strengthen their conceptual clarity and boost confidence before the final exam. Here are the best ways to effectively use AP ICET sample papers for maximum score improvement.

### Understand the Exam Pattern and Question Trends

Before solving multiple papers, carefully analyze one full sample paper to understand the structure. The AP ICET exam consists of three main sections: Analytical Ability, Mathematical Ability, and Communication Ability. Observe the distribution of questions, marking scheme, and difficulty level. Pay attention to frequently repeated topics and question formats. This step helps you build familiarity with the actual exam environment and reduces surprises on exam day.

### Analyse Mistakes Thoroughly

Solving sample papers without reviewing mistakes defeats the purpose. After completing each paper, analyse incorrect answers carefully. Identify whether the mistake was due to conceptual gaps, calculation errors, or time pressure. Maintain a separate notebook for error tracking. Revisiting these mistakes regularly ensures you don’t repeat them in future practice sessions or in the actual exam.

### Improve Section-Wise Strategy

AP ICET requires a balanced approach across all sections. Use sample papers to identify strong and weak sections. If Mathematical Ability consumes too much time, work on improving calculation speed and shortcuts. If the communication ability has low accuracy, revise the grammar rules and vocabulary. Gradually build a personalised attempt strategy—decide which section to attempt first and how much time to allocate to each part.

### Track Progress Before the Exam

Regular practice with sample papers helps you track your progress over time. Compare scores week by week to evaluate improvement. Start with basic-level sample papers, then shift to moderate and advanced difficulty levels. This gradual progression ensures consistent growth in performance. By the time the actual exam arrives, you’ll feel more confident, prepared, and capable of handling challenging questions effectively.

## AP ICET Previous Question Papers With Solutions Free Download

For preparation of AP ICET 2026 entrance exam, candidates can include AP ICET previous question papers with solutions free download to secure good marks in this state level MBA entrance exam.

| APICET Previous Papers | AP ICET Question Paper Link |
|---|---|
| AP ICET 2023 Question Paper with Answers- Shift 1 | Click here |
| AP ICET 2023 Question Paper with Answers- Shift 2 | Click here |
| AP ICET 2022 Question Paper With Solutions- Shift 1 | Click here |
| AP ICET Question Paper 2022 pdf- Shift 2 | Click here |
| AP ICET 2020 Question Paper with Solutions- Shift 1 | Click here |
| AP ICET Question Paper 2020 with Solutions- Shift 2 | NA |
| AP ICET 2020 Question Paper with Solutions- Shift 3 | Click here |
| AP ICET 2020 Question Paper with Solutions- Shift 4 | Click here |
| AP ICET 2019 Question Paper with Answer Key - Shift 1 | Click here |
| AP ICET 2019 Question Paper with Answer Key - Shift 2 | Click here |
| AP ICET 2018 Question Papers | Click here |
| AP ICET 2017 Question Paper pdf with solutions | NA |

## AP ICET Exam Pattern

To score well in AP ICET 2026 exam, students must be aware of the exam pattern of AP ICET. Check the table below to know the AP ICET 2026 exam pattern. The table mentions the sections, number of questions, and marking scheme.

### AP ICET 2026 Exam Pattern

| | |
|---|---|
| Exam Name | AP ICET 2026 |
| Exam Mode | Computer-Based |
| Type of Question | Multiple-choice questions |

| | |
|---|---|
| Exam Duration | 150 minutes |
| Number of Questions | 200 |
| Number of sections | • Analytical Ability (No. of questions: 75)<br>• Mathematical Ability (No. of questions: 55)<br>• Communication Ability (No. of questions: 70) |
| Marking Scheme | 1 mark for every correct answer |
| Negative Marking | No negative marking |

## AP ICET 2026 Exam Syllabus

Authorities do not release the syllabus for AP ICET on the official website. Candidates can find the important topics for each section with the syllabus as per past year trends. Check the table below to know some of the important topics in each section:

Section-A: Analytical Ability

Data Sufficiency

Problem-Solving

- Sequences and Series :
- Data Analysis:
- Coding-Decoding Problems
- Date, Time & Seating Arrangement Problems

Section-B: Communication Ability

| | |
|---|---|
| Vocabulary | Business and computer terminology |
| Functional grammar | Reading comprehension |

Section-C: Mathematical Ability

Arithmetical Ability

Algebraical and Geometry & Mensuration Ability

## AP ICET 2026 Mock Test

AP ICET past papers and AP ICET sample exams are required for all students studying for the competitive AP ICET MBA exam 2026. These AP ICET Sample papers may give applicants with valuable preparation for the AP ICET exam. Careers360 has created a completely new e-book on AP ICET 2026 mock exams that adhere to the precise framework established by the APSCHE for the AP ICET 2026 exam. Candidates must download and practice AP ICET 2026 comprehensive mock test by Careers360 to give a boost to their preparation.

### AP ICET 2026 Sample Papers

The AP ICET 2026 examination is taken by thousands of applicants and is therefore one of the most competitive exams in the country. Solving a large number of AP ICET model papers is critical for a candidate's performance on the AP ICET test. Keeping all of these aspects in mind, Careers360 has prepared an AP ICET 2026 sample paper series for candidates. that may help candidates to download and study the AP ICET 2026 sample paper and prepare well.